Unit 6: Topic 1
2D shapes

A regular shape has all its sides of the same length and all its angles of the same size.

regular pentagon

An irregular shape does not have all sides of equal length and does not have all angles of the same size.

irregular pentagon



Guided practice

1 Match the quadrilaterals with their descriptions.



rectangle

- regular shape
- 4 sides are the same length
- 4 angles are the same size



parallelogram

- irregular shape
- 1 pair of parallel sides

square

- irregular shape
- 2 pairs of parallel sides



trapezium

- irregular shape
- 4 right angles
- 2 pairs of parallel sides

Oxford University Press

Independent practice

1 Complete the descriptions and name each shape.

a

Parallel lines: Yes | No

Regular: Yes | No

Name: _____

No. of sides: _____

b

Parallel lines: Yes | No

Regular: Yes | No

Name: _____

No. of sides: _____

c

Parallel lines: Yes | No

Regular: Yes | No

Name: _____

No. of sides: _____

d



Parallel lines: Yes | No

Regular: Yes | No

Name: _____

No. of sides: _____

e

Parallel lines: Yes | No

Regular: Yes | No

Name: _____

No. of sides: _____

2 Write 3 points to describe each shape, and then name it.

a



Name: _____

b

Name: _____

c

Name: _____

d

Name: _____

e

Name: _____

You can also think about corners and angles to help describe shapes.